1. What is this computer hardware called?

(A) a keyboard
(B) a monitor
(C) a mouse
(D) a printer

2. Sal typed the word 'holidays'. Then she made the text bold.

Which of these shows Sal's text?

(A) holidays
(B) *holidays*
(C) **holidays**
(D) <u>holidays</u>

3. Paul is writing an email to send to his friend, Bill.

Where must Paul type Bill's email address?

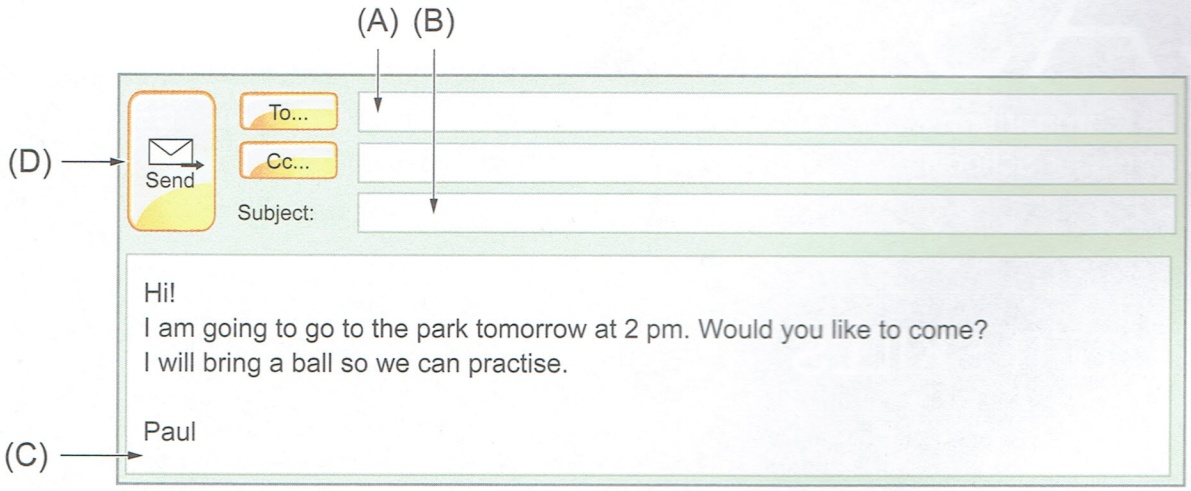

Use the following information to answer questions 4 and 5.

Dan used a drawing program to create a jungle picture. He inserted an image of a tiger, then copied and pasted it.



4. Dan made Tiger 2 twice the height and twice the width of Tiger 1. He used only one handle to do this.

Which handle did Dan use?

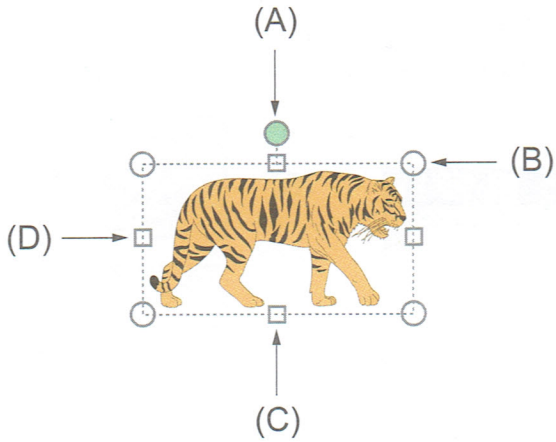

5. Dan wants to remove some of the grass he has drawn.

Which tool should Dan use to do this?

(A)

(B)

(C)

(D)

6. Every month Kim wants to calculate how much money she makes by selling bracelets.

What type of software should Kim use?

(A) email
(B) graphics
(C) spreadsheet
(D) media player

7. Bill wants to find and then edit a story he wrote and saved yesterday.

Which icon should Bill click first?

(A) New

(B) Open

(C) Save

(D) Save As

8. This is a view of Liam's desktop.

Liam wants to move the 'DrawingBoard' window to the centre of his desktop.

Where should Liam click on the window to drag it to the centre?

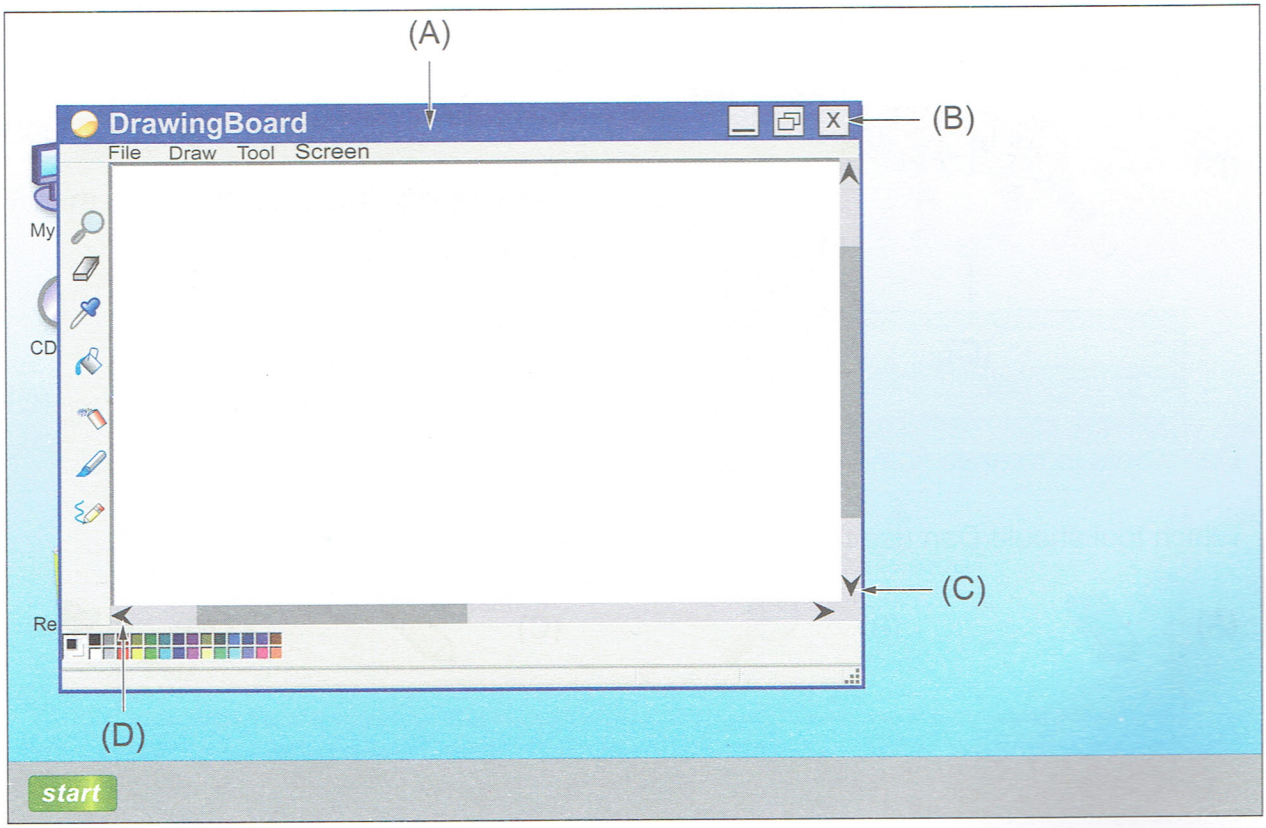

Use the following information to answer questions 9 and 10.

Eva is using a word processing program to write a story about her two best friends.

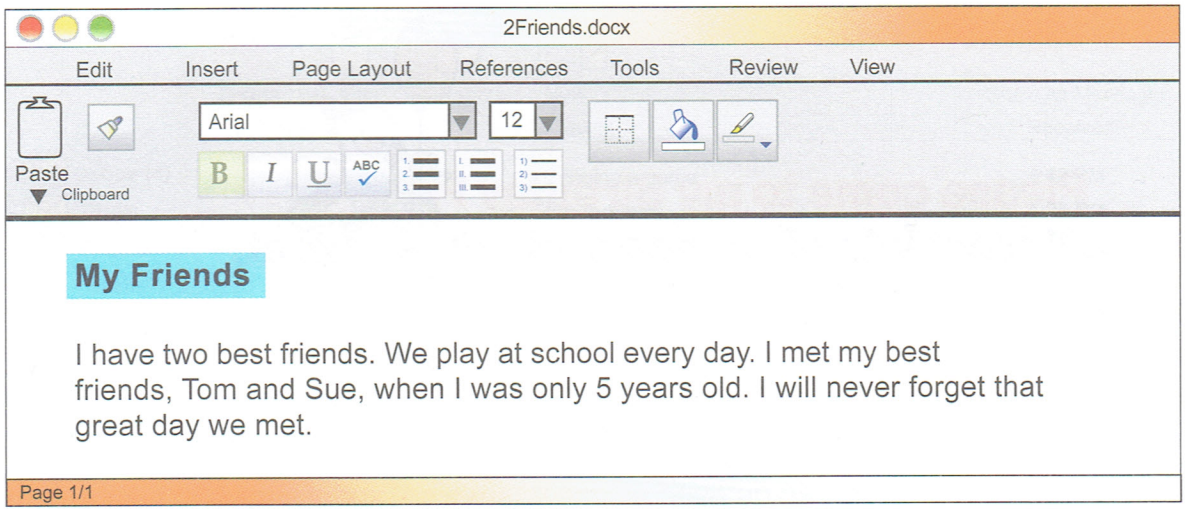

9. What font size did Eva choose for the title of her story?

(A) Arial
(B) ABC
(C) 2
(D) 12

10. Eva wants to find another word to use instead of 'great'.

Which icon should Eva use to do this?

(A)

(B)

(C)

(D)

11. Lara is making an invitation to her party. She made a change to Invitation 1 and saved it as Invitation 2.

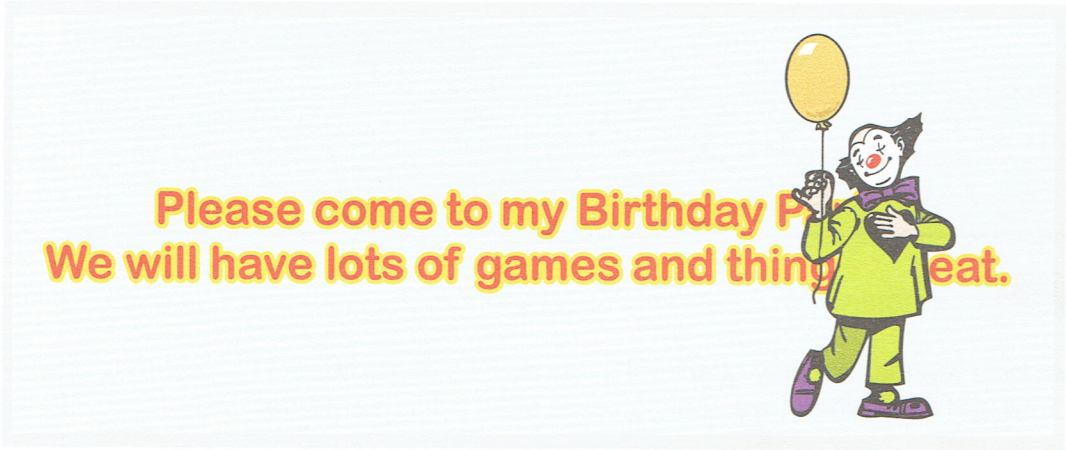

Invitation 1

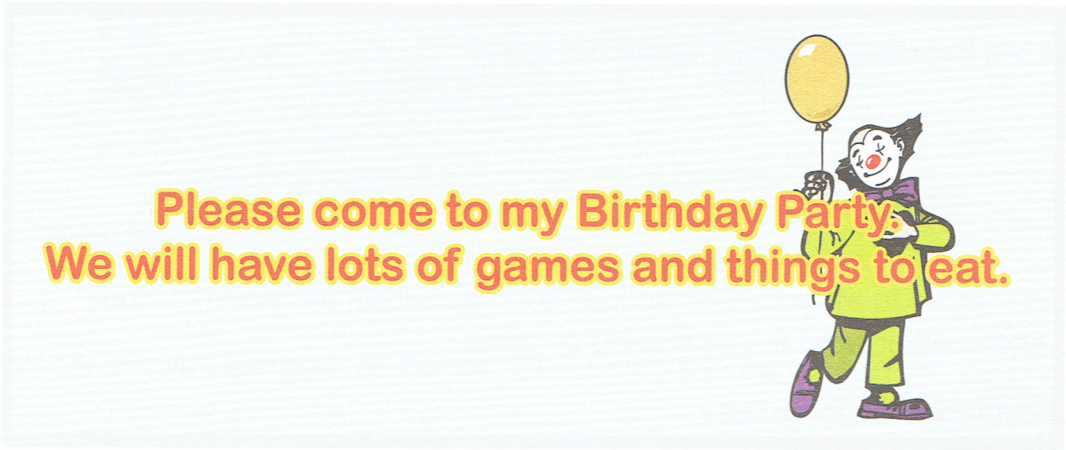

Invitation 2

Which of these Picture Layout options did Lara use to make this change?

(A) Tight
(B) Square
(C) Behind Text
(D) In Front of Text

Use the following information to answer questions 12 and 13.

Sam logged into his email account. A view of Sam's Inbox is shown below.

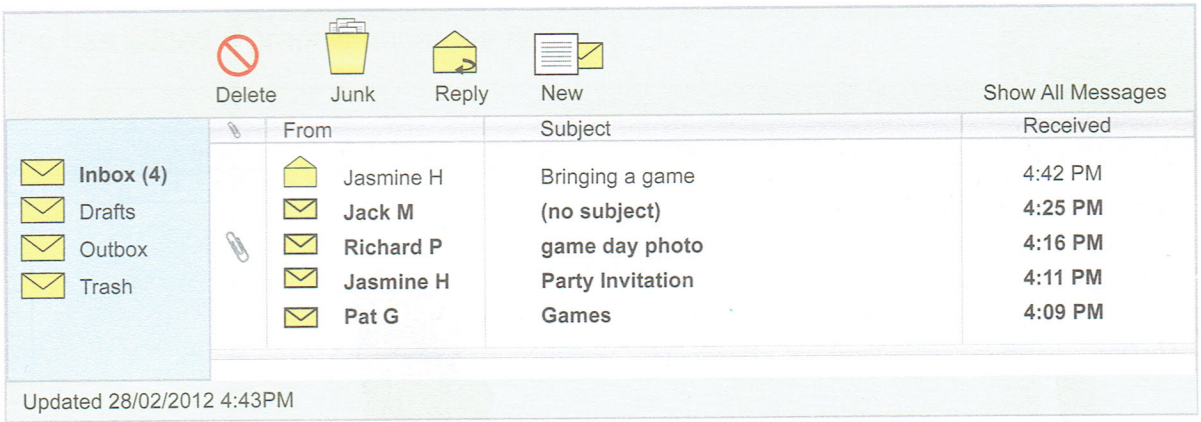

12. In this view of Sam's Inbox, how many emails have an attachment?

(A) 1 (B) 2 (C) 4 (D) 5

13. One of Sam's friends forgot to include what the email was about.

Who was the friend?

(A) Jasmine H (B) Jack M (C) Richard P (D) Pat G

14. Lee is using a word processing program to write an article for the school newspaper.

Two classmates reunited!

by Lee

Friday 3rd April

After Sue and Kayo changed schools, they thought they would never see each other again. Little did they know...how wrong they were.

Which words in Lee's article have been aligned to the right using this tool, ?

(A) **Two classmates reunited!**
(B) by Lee
(C) *Friday 3rd April*
(D) how wrong they were.

Use the following information to answer questions 15 and 16.

Kim is preparing a multimedia presentation about her farm.

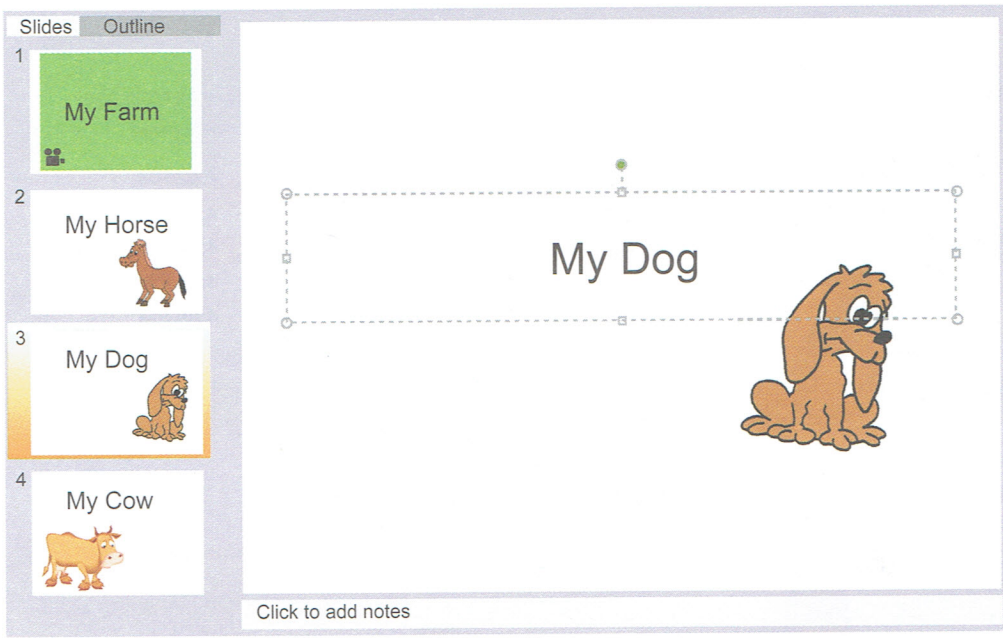

15. What features did Kim include on the selected slide?

(A) text and sound
(B) sound and video
(C) text and a graphic
(D) sound and a graphic

16. Kim wants to add a new slide.

If she clicks and adds a slide now, what will Kim's slide view look like?

(A) (B) (C) (D)

Use the following information to answer questions 17 to 19.

Ann is using a word processing program to write a report on whales.

She has added a graphic under the heading.



17. Which menu option did Ann use to add this graphic to her report?

(A) Insert (B) Page Layout (C) View (D) Format

18. Ann wants to highlight the heading, 'WHALES'.

Which of these options should Ann use?

(A)

(B)

(C)

(D)

19. Ann used caps lock so that the heading in her report was in upper case.

Which key on her keyboard should Ann now press to type in lower case?

(A) esc
(B) end
(C) tab
(D) caps lock

Use the following information to answer questions 20 and 21.

Pam used the Shapes option in a drawing program to draw a face. She now has the Fill Bucket tool in position.



20. Which part of Pam's drawing will change colour if she clicks her mouse now?

(A) eyes (B) nose (C) mouth (D) background

21. Pam selects the nose in her drawing. She wants to move it down towards the mouth.

What will the mouse pointer look like as Pam moves the nose?

(A) ↔

(B) I

(C) ✥

(D) ➘

22. This is a view of Tom's Folder.

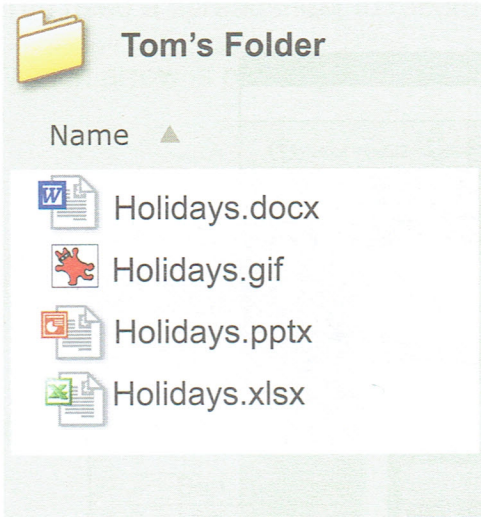

Each of these filenames has some letters after the word 'Holidays'.

What information do these letters give about these files?

(A) size
(B) type
(C) name
(D) location

23. This is a view of a database of cartoons.

Cartoons			
Cartoon ID	**Cartoon Name**	**Date of Release**	**Episode Number**
4534553	Boggles	12/03/2012	3
5453455	Boggles	19/03/2012	4
6456456	Zing	12/04/2012	2

How many records are contained in this view of the database?

(A) 3
(B) 4
(C) 12
(D) 16

Use the following information to answer questions 24 and 25.

Ann is using this website for her assignment.

24. If Ann clicks her mouse now, what should happen next?

(A) More text about tigers will be displayed.
(B) The next photo of a tiger will be displayed.
(C) The size of the photo of the tiger will increase.
(D) The next photo and more text about tigers will be displayed.

25. If Ann clicks on 'Favorites/Bookmarks' what will appear on her screen?

(A) a list of Ann's saved internet addresses
(B) a list of the best internet sites about tigers
(C) a list of the last 10 internet sites Ann has visited
(D) a list of all the internet addresses Ann has visited

Use the following information to answer questions 26 to 29.

Tim used a spreadsheet to record the number of books his group read in one week.

26. Which arrow is pointing to a row in Tim's spreadsheet?

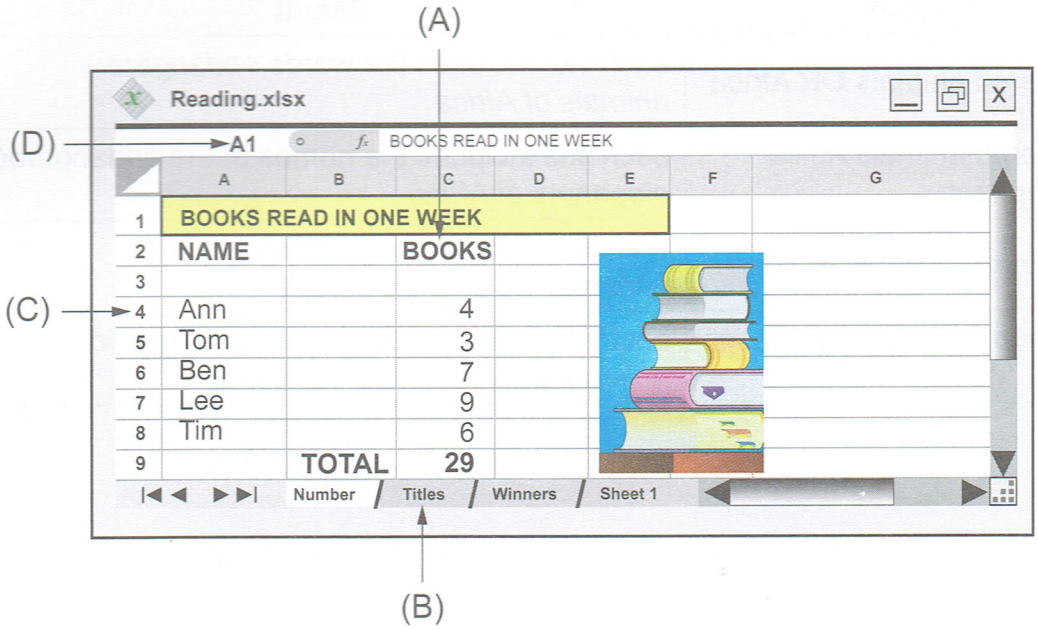

27. Tim merged some cells for his heading, '**BOOKS READ IN ONE WEEK**'.

How many cells did Tim merge to do this?

(A) 1
(B) 2
(C) 3
(D) 5

28. The formula =SUM(C4:C8) has been entered into a cell.

Which cell contains this formula?

(A) C4 (B) C8 (C) B9 (D) C9

29. What is the name of the worksheet Tim is editing?

(A) Reading
(B) Number
(C) Winners
(D) Sheet 1

30. Eva is learning to search the Internet for information. This table shows four of Eva's searches.

Which option correctly matches a search with its result?

	Search	Result
(A)	endangered animals **OR** Africa	each site includes the words *endangered animals of Africa*
(B)	endangered animals Africa **NOT** elephant	each site includes the names of the endangered elephants of Africa
(C)	"endangered animals of Asia"	each site includes the names of all the endangered animals of Asia
(D)	"endangered animals" **AND** Asia	each site includes the words *endangered animals* as well as the word *Asia*

CS | 2012 Computer Skills Answer Keys

ICAS
International Competitions and Assessments for Schools

Question Number	Papers A & B	Papers C & D	Paper E & F	Papers G & H
1	D	C	D	D
2	C	B	B	A
3	A	A	A	A
4	B	A	A	A
5	A	A	C	C
6	C	C	A	B
7	B	D	A	D
8	A	C	B	B
9	D	C	B	B
10	C	A	A	D
11	C	B	C	C
12	A	A	B	D
13	B	D	D	C
14	C	C	A	B
15	C	B	C	B
16	C	B	D	B
17	A	B	C	C
18	B	A	C	A
19	D	D	D	A
20	D	B	C	B
21	C	C	C	D
22	B	B	B	A
23	A	C	D	B
24	B	D	B	D
25	A	A	D	C
26	C	C	D	D
27	D	D	D	D
28	D	B	B	B
29	B	D	C	C
30	D	C	D	D

(Please turn over)

© 2013 Educational Assessment Australia. EAA is an education group of UNSW Global Pty Limited, a not-for-profit provider of education, training and advisory services and a wholly owned enterprise of the University of New South Wales. ABN 62 086 418 582

CS | 2012 Computer Skills Answer Keys

ICAS
International Competitions and Assessments for Schools

Question Number	Papers A & B	Papers C & D	Paper E & F	Papers G & H
31		D	D	A
32		D	C	C
33		B	D	C
34		B	B	B
35		B	B	C
36			A	D
37			C	A
38			C	D
39			A	C
40			B	C
41				D
42				C
43				D
44				C
45				C

Contact Details
Telephone: (02) 8344 1016
Email: info@eaa.unsw.edu.au
Website: www.eaa.unsw.edu.au

© 2013 Educational Assessment Australia. EAA is an education group of UNSW Global Pty Limited, a not-for-profit provider of education, training and advisory services and a wholly owned enterprise of the University of New South Wales. ABN 62 086 418 582